Roundabout Risk Perception Survey

Section 1: ***Knowledge and usage of roundabouts***

1. If vehicles A and B arrive at their current positions simultaneously, which vehicle should yield?

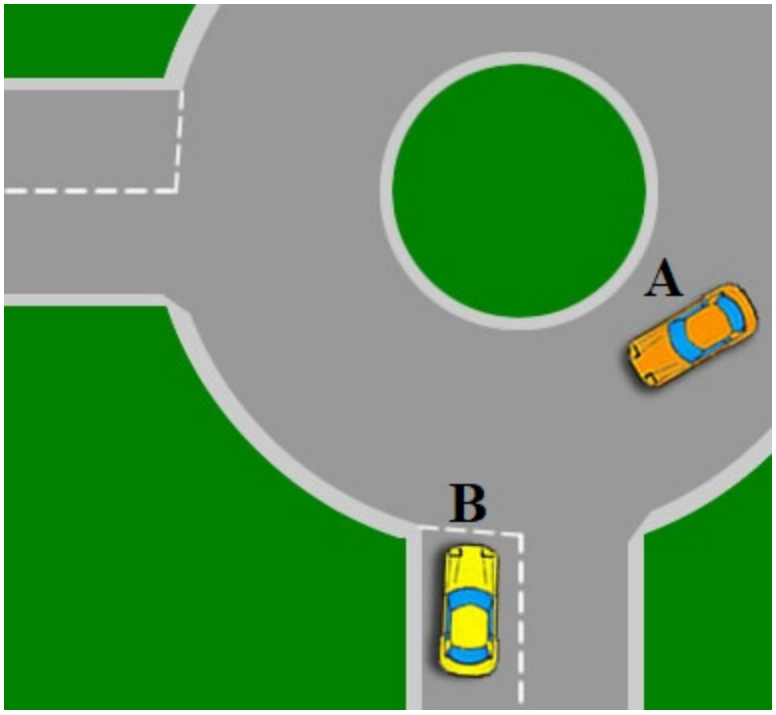

Mark only one oval.

- Vehicle A
- Vehicle B
- Both vehicle A and Vehicle B
- None of them should yield

2. If you are trying to take a right turn through a roundabout, which route (route A or route B) in the image represents correct behavior?

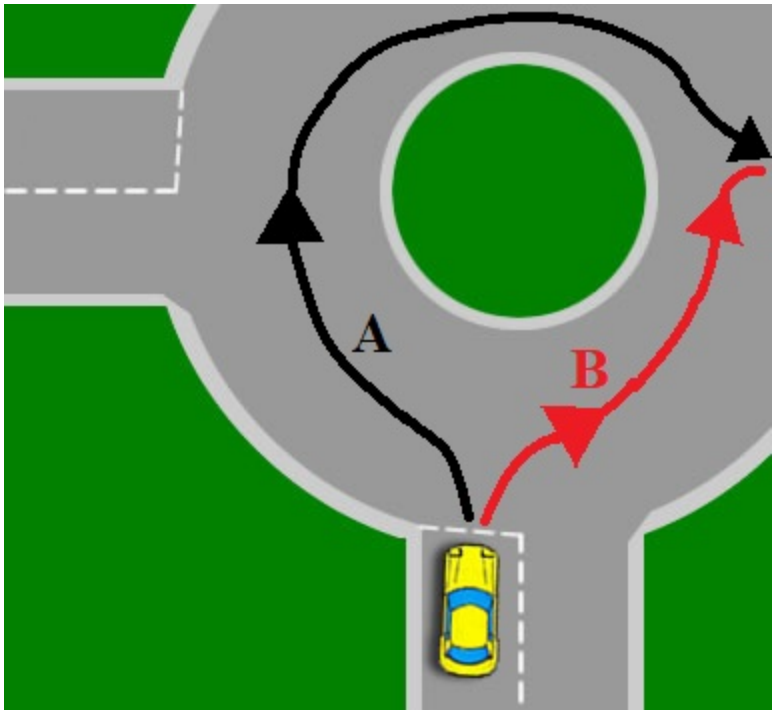

Mark only one oval.

- Route A
- Route B
- Both Route A and Route B are correct
- Both Route A and Route B are incorrect

3. While approaching a roundabout, before entering, it is advisable to :

Mark only one oval.

- Increase speed
- Decrease the speed
- Keep the same speed
- Stop

4. During the maneuver on the circulatory road of the roundabout, you will:

Mark only one oval.

- Increase speed
- Keep the same speed
- Decrease the speed

5. During the exit maneuver from the roundabout, you will:

Mark only one oval.

- Increase speed
- Keep the same speed
- Decrease the speed

6. While driving through a roundabout, if you miss the exit you wanted, what should you do?

Mark only one oval.

- Take any other exit
- Move reverse direction to take the exit
- Continue around the circle until you get back to the correct exit
- Other

7. Should you use your turn signal while waiting at the yield line of a roundabout?

Mark only one oval.

- yes, left turn indicator light should be used
- yes, right turn indicator light should be used
- yes, left, straight and right turn indicator light should be used depending on direction of exit to be taken
- no, use of turn signals or indicator lights are not required.

8. Should you use your left turn signal when exiting the roundabout?

Mark only one oval.

- No
- Yes
- Maybe

9. If you are waiting at the yield line of a roundabout and an emergency vehicle arrives at one of the other approaches, what should you do?

Mark only one oval.

- Continue to enter the circular roadway
- Enter the circular roadway and then stop to give path to emergency vehicle to pass
- Wait at the yield line until the emergency vehicle clears the roundabout
- Enter the roundabout, increase speed and exit the roundabout before the emergency vehicle

10. If you are driving in a roundabout when an emergency vehicle approaches, what should you do?

Mark only one oval.

- Exit at the next available exit and pull over once away from the roundabout
- Continue driving in the usual way
- Stop your vehicle wherever you are (i.e. in the circular road) to give path for emergency vehicle
- Move in reverse direction to create space for emergency vehicle to pass.

11. Where should vehicles wait for pedestrian and bicycle traffic when encountered?

Mark only one oval.

- Vehicles should not wait (Pedestrian and bicyclists should move away from crosswalk when an approaching vehicle is observed)
- At the stop lines in front of the crosswalk locations
- Vehicles should wait at the yield lines only after crossing the crosswalk at very low speed

12. What is the purpose of the ring-shaped paved area of a roundabout which is shown in the figure and image?

Mark only one oval.

- For parking vehicles
- For the usage of pedestrians
- For the usage of bicyclists
- For enhancing the aesthetics
- For increasing the visibility
- Extra space for future development
- For easy turning of large vehicles and emergency vehicles

Section 2: ***Perceived risk among roundabout users***

13. While you are entering a roundabout, the amount of risk of an accident is:

Mark only one oval.

- Very high
- High
- Medium
- Low
- Very low

14. While you are circulating within the roundabout, the amount of risk of an accident is:

Mark only one oval.

- Very high
- High
- Medium
- Low
- Very Low

15. While you are exiting a roundabout, the amount of risk of an accident is:

Mark only one oval.

- Very high
- High
- Medium
- Low
- Very low

16. The amount of risk of facing an accident while traveling through a "single-lane" roundabout is:

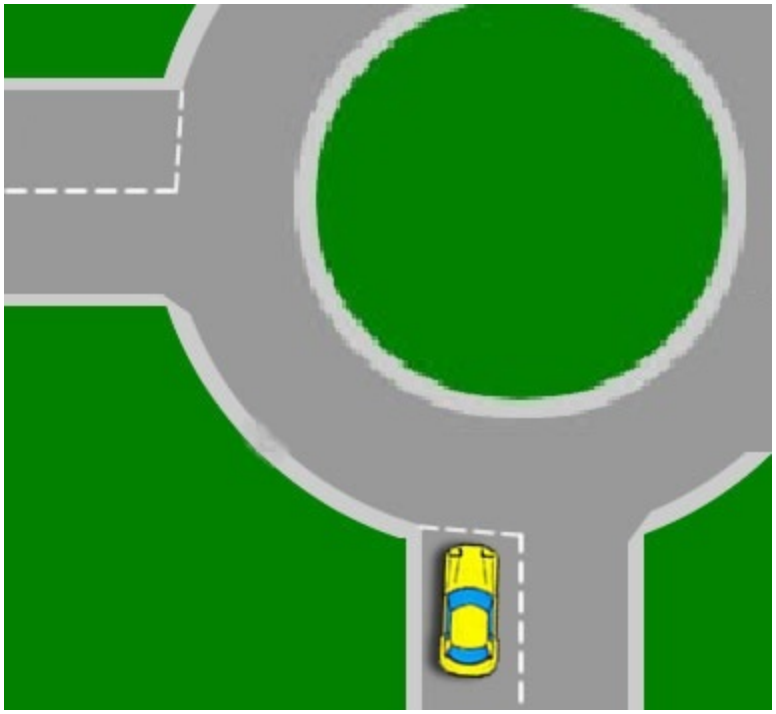

Mark only one oval.

- Very high
- High
- Medium
- Low
- Very Low

17. The amount of risk of facing an accident while traveling through a "double-lane" roundabout is:

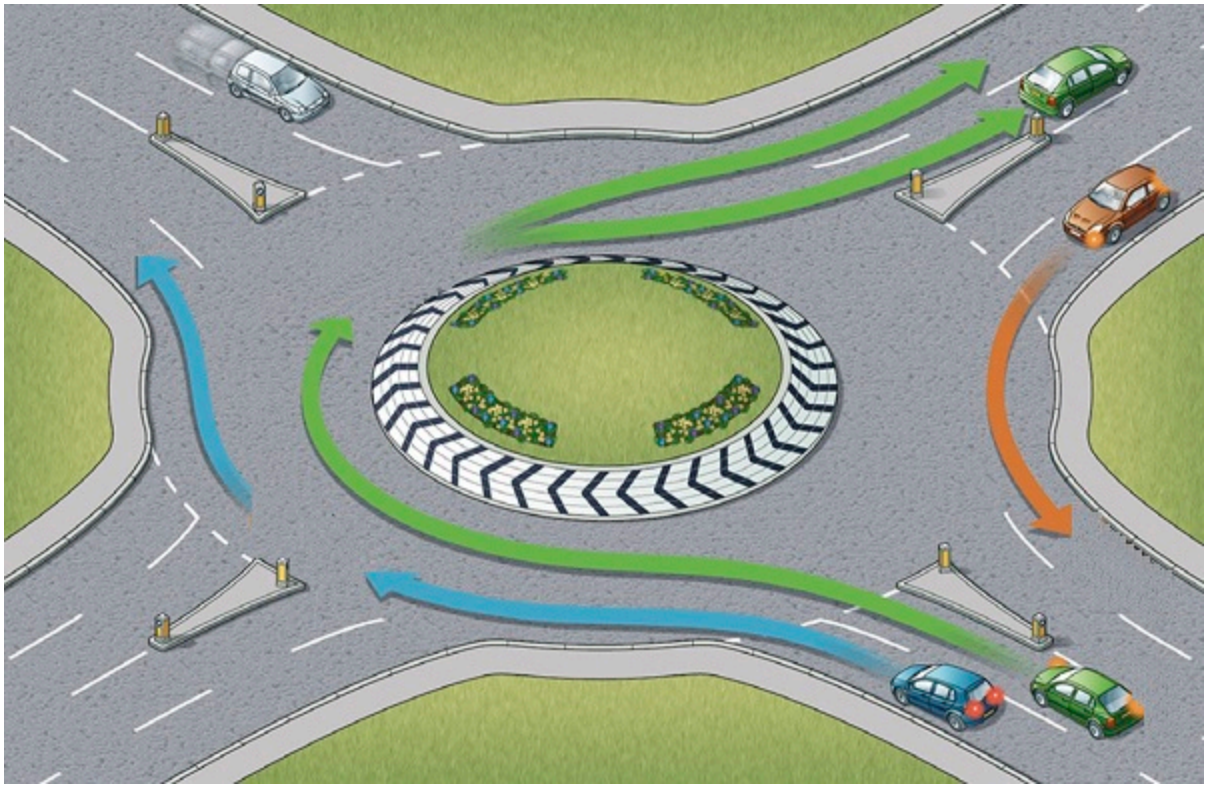

Mark only one oval.

- Very high
- High
- Medium
- Low
- Very low

18. The amount of risk of facing an accident while traveling through a "multi-lane" roundabout is:

Mark only one oval.

- Very high
- High
- Medium
- Low
- Very low

19. The chance of facing an accident in a roundabout is more with:

Mark only one oval.

- Pedestrians
- Bicyclists
- Motorcyclists
- Other car drivers

20. How safe are the roundabouts for car drivers?

Mark only one oval.

- Very safe
- Safe
- Neither safe nor dangerous
- Dangerous
- Very dangerous

21. How safe are the roundabouts for motorcyclists?

Mark only one oval.

- Very safe
- Safe
- Neither safe nor dangerous
- Dangerous
- Very dangerous

22. How safe are the roundabouts for pedestrians?

Mark only one oval.

- Very safe
- Safe
- Neither safe nor dangerous
- Dangerous
- Very dangerous

23. How safe are the roundabouts for bicyclists?

Mark only one oval.

- Very safe
- Safe
- Neither safe nor dangerous
- Dangerous
- Very dangerous

24. Have you faced an accident/near-accident that was avoided anyhow or witnessed an accident in a roundabout?

Mark only one oval.

- Yes
- No

25. Location of the accident/unsafe situation at the roundabout:

Mark only one oval.

- Approach roads before entering
- Merging area of road between approaching road and circular road
- Within circular roadway
- Diverging area of road between exiting road and circular road
- Other

26. Type of the accident:

Mark only one oval.

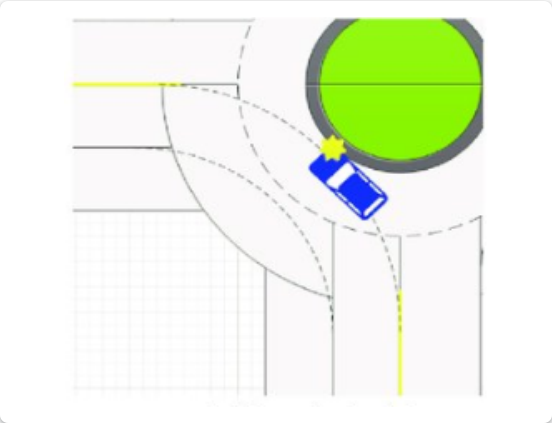

Single vehicle crash

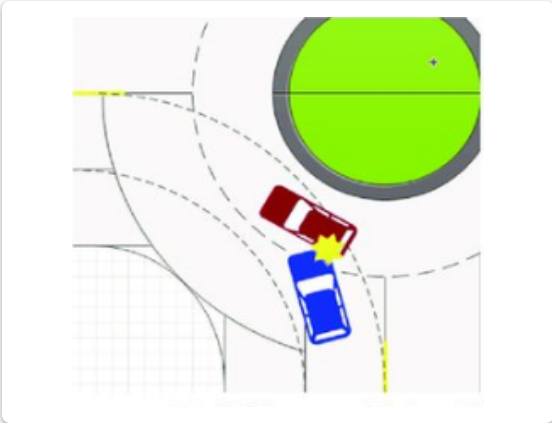

Vehicle to vehicle (front to side)

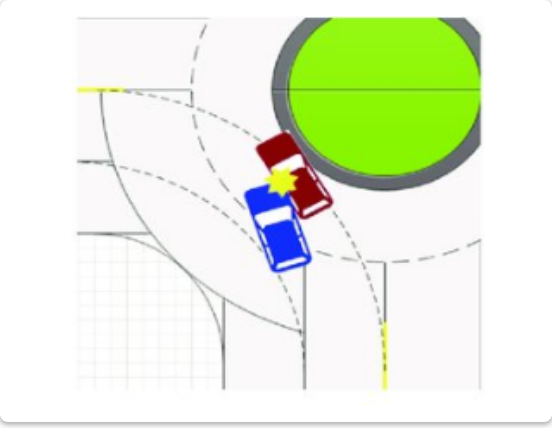

Side swipe crash

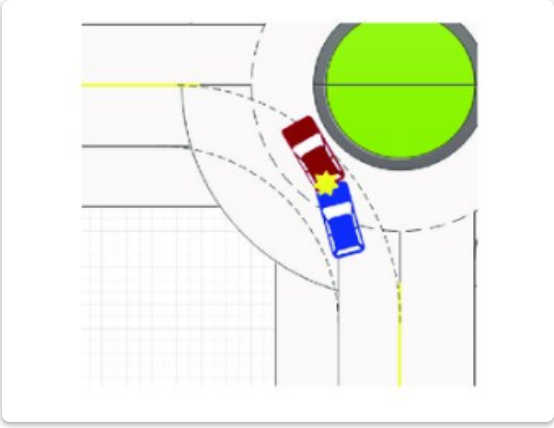

Rear end crash

Other

27. What was the consequence of the accident?

Mark only one oval.

- Death
- Serious injury (Hospitalization was done)
- Minor injury (First Aid etc.)
- Vehicle damaged only (No injury)
- Other

28. Day of the accident:

Mark only one oval.

- Weekdays
- Weekends

29. Time of the accident:

Mark only one oval.

- 6 - 8 am
- 8- 10 am
- 10am to 12 pm
- 12pm to 3pm
- 3pm to 5pm
- 5pm to 7pm
- 7pm to 10pm
- 10pm to 2am
- 2am to 6am

30. Why do you think the accident occurred?

Check all that apply.

- [ ] Overspeeding and violating the speed limit
- [ ] Abrupt stopping of vehicles both at the entrance as well as within the circle
- [ ] Failing to yield to the circulating traffic
- [ ] Failing to yield to the pedestrians and bicyclists
- [ ] Driving in the incorrect lane and abrupt lane change to exit the roundabout
- [ ] Driver was distracted or intoxicated
- [ ] Driver did not use turning indicator lights

31. What is your overall opinion on roundabouts regarding safety?

Mark only one oval.

- ( ) Very safe
- ( ) Safe
- ( ) Neither safe nor dangerous
- ( ) Dangerous
- ( ) Very dangerous

Section 3: *Roundabout Characteristics (traffic, speed, signs, markings, lighting, visibility)*

32. With the increase in traffic navigating a roundabout, how does the risk of facing an accident vary?

Mark only one oval.

- ( ) Very high chance
- ( ) High chance
- ( ) Medium chance
- ( ) Low chance
- ( ) Very low chance

33. What is the speed limit at the roundabouts inside the IIT Roorkee campus?

Mark only one oval.

- 10 kmph
- 20 kmph
- 30 kmph
- 40 kmph
- 50 kmph

34. What is the average speed at which you drive across a roundabout situated in the IIT Roorkee campus?

Mark only one oval.

- <10 kmph
- 10 to 20 kmph
- 20 to 30 kmph
- 30 to 40 lmph
- 40 to 50 kmph
- >50 kmph

35. Are "GIVE WAY" signs present at the entrance roadway before entering the roundabout?

Mark only one oval.

- Yes
- No

36. Are "Keep Left" signs present at the entrance roadway before entering the roundabout?

Mark only one oval.

- Yes
- No

37. Are "Roundabout" signs present at the entrance roadway before entering the roundabout?

Mark only one oval.

- Yes
- No

38. Are Speed Breakers present at the entrance roadway before entering the roundabout?

Mark only one oval.

- Yes
- No

39. Are "Speed Breaker" signs present at the entrance roadway before entering the roundabout?

Mark only one oval.

- Yes
- No

40. Are Chevron signs and Chevron markings present inside the roundabout?

Mark only one oval.

- Yes
- No

41. Are Object Hazard signs present in the roundabout?



Mark only one oval.

- Yes
- No

42. Are "GIVE WAY" lines present at the entrance roadway before entering the roundabout?



Mark only one oval.

- Yes
- No

43. Are 'lane directional arrow' markings present in the roundabout?

Mark only one oval.

- Yes
- No

44. Road lighting present at the roundabout locations in the IIT Roorkee campus is sufficient.

Mark only one oval.

- Strongly agree
- Agree
- Neutral
- Disagree
- Strongly disagree

45. The driver's vision is blocked by raised central island and roadside buildings.

Mark only one oval.

- Strongly agree
- Agree
- Neutral
- Disagree
- Strongly disagree

Section 4: Socio Demographic Information of the respondents

46. What is your age?

Mark only one oval.

- <18 years
- 18 to 25 years
- 26 to 35 years
- 36 to 50 years
- 51 to 65 years
- >65 years

47. Gender:

Mark only one oval.

- Male
- Female
- Prefer not to say

48. What is the vehicle category mostly used by you?

Mark only one oval.

- Large vehicles (Bus, Truck etc.)
- Cars
- Autorickshaw/ E-rickshaw
- Motorcycle
- Bicycle
- Mostly I walk

49. Do you have a valid driving license?

Mark only one oval.

- Yes
- No

50. It has been how many years since you possess the driving license?

Mark only one oval.

- < 1 year
- 1 year to 5 years
- 5 years to 10 years
- >10 years

51. The average number of roundabouts you travel across in a day within the campus?

Mark only one oval.

- 0
- 1
- 2
- 3
- 4

52. How many times do you cross a particular roundabout within the campus in a day?

Mark only one oval.

- 0 times
- 1 to 3 times
- 3 to 5 times
- 5 to 7 times
- 7 to 9 times
- >9 times

53. What is your occupation?

Mark only one oval.

- Public Employee
- Private Employee
- Self Employed
- Unemployed
- Retired
- Student

54. What is your education level?

Mark only one oval.

- upto Matriculation (class 10)
- Intermediate (class 12)
- Graduate
- Post Graduate

55. Which of these categories describes your personal yearly income (in Rupees)?

Mark only one oval.

- 0-5 lacs
- >5-10 lacs
- >10-15 lacs
- >15-20 lacs
- >20-25 lacs
- >25-30 lacs
- >30-50 lacs
- >50 lacs

This content is neither created nor endorsed by Google.

Google Forms